Section (A) Multiple Choice Questions Answer All The Questions In This Section

1. The diagram below shows a plant cell and its various parts. Which of the labelled parts A, B, **C,** or D contain a substance that helps plants to make their own food?

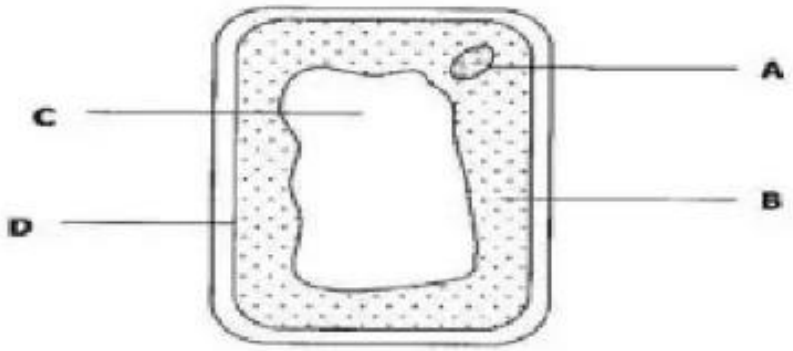

2. Which three structures do plant and animal cells have in common?

A. cell wall, cell membrane, nucleus

B. nucleus, cell membrane, cytoplasm

C. cytoplasm, cellulose, cell membrane

D. cell membrane, vacuole, nucleus

3. Which of the following is a natural sign of puberty that occurs only in boys?

A. Growth of pubic hair

B. Deepening of the voice

C. Menstruation begins

D. Pimples appear on the face

4. The diagram below shows the side view of the male reproductive organs.

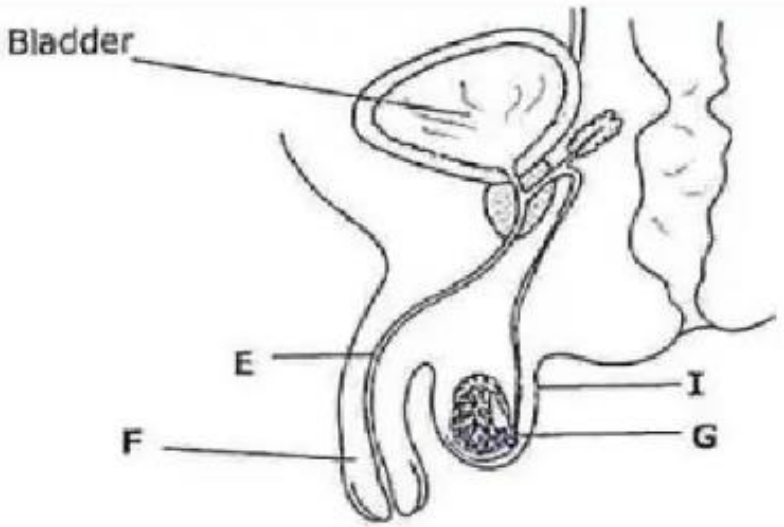

What is the function of structure I?

A. Producing sperms

B. Producing ova

C. Protecting the testes

D. Storing male sex cells

5. The diagram below shows an animal cell. Identify the part labelled N.

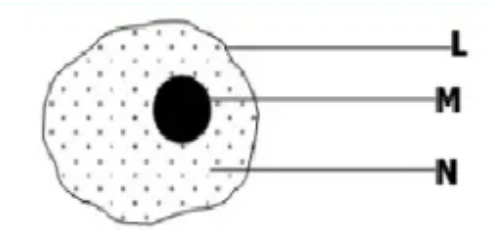

A. Cell wall **B**. Chloroplast **C**. Cytoplasm **D**. Nucleus

Section (B) Answer All The Questions From This Section

1. a) what is biology? …….

……..[1]

ii. The characteristics of living things may be summarized by the mnemonic or acronym MR. GREFIC. State any two characteristics of living things……..…..

……..……..……..……...….

……

……...… [2]

b) Explain the one characteristics of living things mentioned above in question (1. a. ii).

……

……..……..……..……...

……

……..….. [1]

[6marks]

2. The diagram below shows an animal cell.

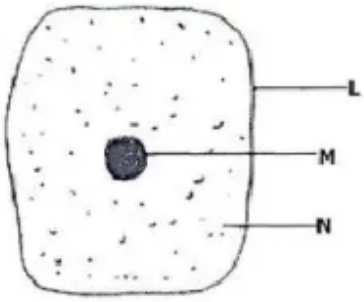

(a) Which letters on the diagram represents the nucleus and cytoplasm?

……..…

…….…. [2]

(b) State the name of the part of an animal cell which selects what goes in and out of the cell.

……..[1]

(c) What **two** parts of a plant cell are **not** found in animal cells?

……..…….

…….….. [2]

(d) What instrument is used to observe the structure of a cell?

……..[1]

[6marks]

3. The diagrams below show plant and animal cells of living organisms.

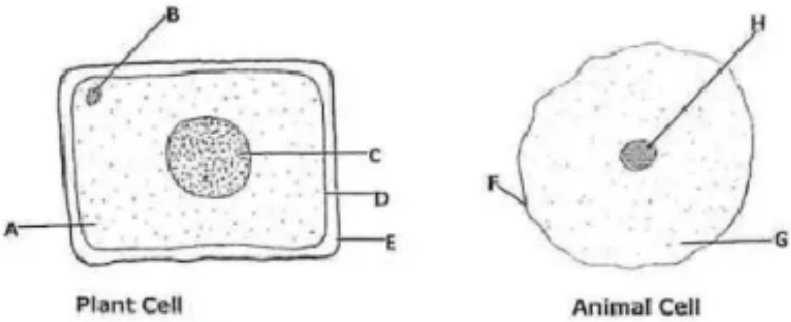

(a) Which labelled part is selectively permeable on the

(i) Plant cell? ……..[1]

(ii) Animal cell? ……..[1]

(b) Identify the structure **F** and explain its function. …….

……..….

…….….. [2]

(c) From the diagram, state one difference between a plant cell and an animal cell.

……..…….

(d) State one other difference between the plant cell and animal cell not in the diagram.

……..….

……..[1]

[6marks]

4. The diagram shows charcoal burning on the brazier and used to heat water in a kettle.

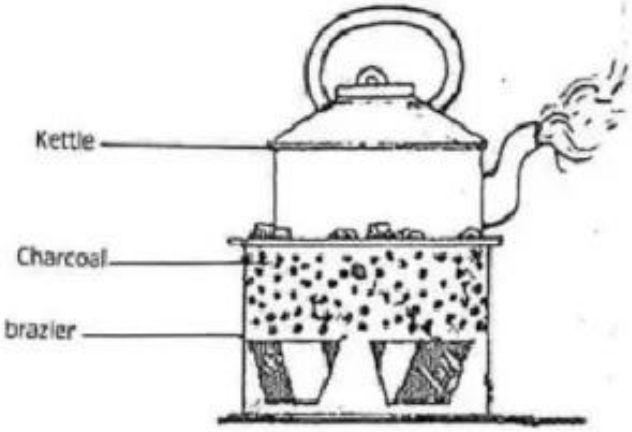

a) (i) Define the term energy. ……

……..[1]

(ii) What form of energy is possessed by charcoal before it is burnt? ……

…….. [1]

(b) Describe the energy change which takes place as the charcoal burns. ……

…….. [1]

(c) Explain how the environment is affected when energy is produced using;

(i) Hydroelectric power station; …….

…….. [1]

(ii) Fossil fuel. ……...

……..[1]

(d) Suggest one way in which energy can be conserved. …….

……..[2]

[6marks]